Printed by: filippo.fiz@uptoten.it. Printing is for personal, private use only. No part of this book may be reproduced or transmitted without publisher's prior permission. Violators will be prosecuted.

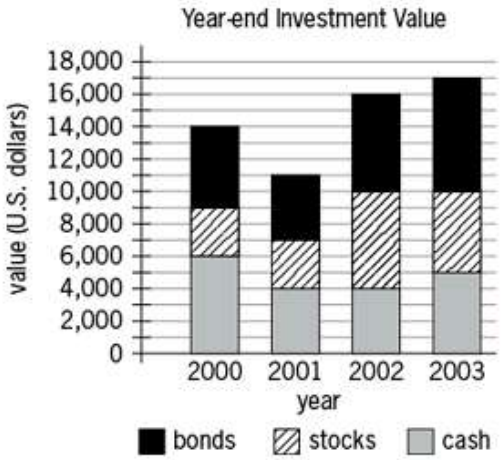

•

The chart above shows year-end values for Darnella's investments. For just the stocks, what was the increase in value from year-end 2000 to year-end 2003?

A. $1,000

B. $2,000

C. $3,000

D. $4,000

E. $5,000

•

If the sum of the reciprocals of two consecutive odd integers is $\frac{12}{35}$, then the greater of the two integers is

A. 3

B. 5

C. 7

D. 9

E. 11

•

What is the sum of the odd integers from 35 to 85, inclusive?

A. 1,560

B. 1,500

C. 1,240

D. 1,120

E. 1,100

•

For all numbers a, b, c, and d, $\begin{vmatrix} a & b \\ c & d \end{vmatrix}$ is defined by the equation $\begin{vmatrix} a & b \\ c & d \end{vmatrix} = ad - cb$. Which of the following is equal to $\begin{vmatrix} s & t \\ 1 & 3 \end{vmatrix} - \begin{vmatrix} -t & 2 \\ s & 4 \end{vmatrix} + \begin{vmatrix} 2 & 2 \\ t & s \end{vmatrix}$?

A. $\begin{vmatrix} s & t \\ 1 & 5 \end{vmatrix}$

DO NOT COPY
filippo.fiz@uptoten.it

Printed by: filippo.fiz@uptoten.it. Printing is for personal, private use only. No part of this book may be reproduced or transmitted without publisher's prior permission. Violators will be prosecuted.

B. $\begin{vmatrix} s & t \\ 7 & 1 \end{vmatrix}$

C. $\begin{vmatrix} s & t \\ 5 & 7 \end{vmatrix}$

D. $\begin{vmatrix} s & -t \\ 1 & 5 \end{vmatrix}$

E. $\begin{vmatrix} s & -t \\ 1 & 7 \end{vmatrix}$

•

In a certain sequence, each term after the first term is one-half the previous term. If the tenth term of the sequence is between 0.0001 and 0.001, then the twelfth term of the sequence is between

A. 0.0025 and 0.025

B. 0.00025 and 0.0025

C. 0.000025 and 0.00025

D. 0.0000025 and 0.000025

E. 0.00000025 and 0.0000025

•

A certain drive-in movie theater has a total of 17 rows of parking spaces. There are 20 parking spaces in the first row and 21 parking spaces in the second row. In each subsequent row there are 2 more parking spaces than in the previous row. What is the total number of parking spaces in the movie theater?

A. 412

B. 544

C. 596

D. 632

E. 692

•

Ada and Paul received their scores on three tests. On the first test, Ada's score was 10 points higher than Paul's score. On the second test, Ada's score was 4 points higher than Paul's score. If Paul's average (arithmetic mean) score on the three tests was 3 points higher than Ada's average score on the three tests, then Paul's score on the third test was how many points higher than Ada's score?

A. 9

B. 14

C. 17

D. 23

E. 25

•

The price of a certain stock increased by 0.25 of 1 percent on a certain day. By what fraction did the price of the stock increase that day?

A. $\frac{1}{2{,}500}$

B. $\frac{1}{400}$

DO NOT COPY filippo.fiz@uptoten.it

Printed by: filippo.fiz@uptoten.it. Printing is for personal, private use only. No part of this book may be reproduced or transmitted without publisher's prior permission. Violators will be prosecuted.

C. $\frac{1}{40}$

D. $\frac{1}{25}$

E. $\frac{1}{4}$

•

For each trip, a taxicab company charges \$4.25 for the first mile and \$2.65 for each additional mile or fraction thereof. If the total charge for a certain trip was \$62.55, how many miles at most was the trip?

A. 21

B. 22

C. 23

D. 24

E. 25

•

When 24 is divided by the positive integer n, the remainder is 4. Which of the following statements about n must be true?

I. n is even.

II. n is a multiple of 5.

III. n is a factor of 20.

A. III only

B. I and II only

C. I and III only

D. II and III only

E. I, II, and III

•

Terry needs to purchase some pipe for a plumbing job that requires pipes with lengths of 1 ft 4 in, 2 ft 8 in, 3 ft 4 in, 3 ft 8 in, 4 ft 8 in, 5 ft 8 in, and 9 ft 4 in. The store from which Terry will purchase the pipe sells pipe only in 10-ft lengths. If each 10-ft length can be cut into shorter pieces, what is the minimum number of 10-ft pipe lengths that Terry needs to purchase for the plumbing job?

(Note: 1 ft = 12 in)

A. 3

B. 4

C. 5

D. 6

E. 7

•

What is the thousandths digit in the decimal equivalent of $\frac{53}{5{,}000}$?

A. 0

B. 1

C. 3

D. 5

DO NOT COPY
filippo.fiz@uptoten.it

Printed by: filippo.fiz@uptoten.it. Printing is for personal, private use only. No part of this book may be reproduced or transmitted without publisher's prior permission. Violators will be prosecuted.

D. 5

E. 6

•

If a equals the sum of the even integers from 2 to 20, inclusive, and b equals the sum of the odd integers from 1 to 19, inclusive, what is the value of $a - b$?

A. 1

B. 10

C. 19

D. 20

E. 21

•

If a, b, c, and d are consecutive even integers and $a < b < c < d$, then $a + b$ is how much less than $c + d$?

A. 2

B. 4

C. 6

D. 8

E. 10

•

A retailer sold an appliance for $80. If the retailer's gross profit on the appliance was 25 percent of the retailer's cost for the appliance, how many dollars was the retailer's gross profit?

A. $10

B. $16

C. $20

D. $24

E. $25

•

Beth has a collection of 8 boxes of clothing for a charity, and the average (arithmetic mean) number of pieces of clothing per box is c. If she replaces a box in the collection that contains 12 pieces of clothing with a box that contains 22 pieces of clothing, what is the average number of pieces of clothing per box for the new collection, in terms of c?

A. $c - \frac{5}{4}$

B. $c + \frac{5}{4}$

C. $8 - \frac{10}{c}$

D. $8 + \frac{10}{c}$

E. $8c - 10$

$$\frac{1 + 0.0001}{0.04 + 10}$$

•

The value of the expression above is closest to which of the following?

DO NOT COPY filippo.fiz@uptoten.it

Printed by: filippo.fiz@uptoten.it. Printing is for personal, private use only. No part of this book may be reproduced or transmitted without publisher's prior permission. Violators will be prosecuted.

The value of the expression above is closest to which of the following?

A. 0.0001

B. 0.001

C. 0.01

D. 1

E. 10

•

If $x + 1 = t$ and $t = 3 - x$, then $x =$

A. −2

B. −1

C. 0

D. 1

E. 2

•

If $x = kc$ and $y = kt$, then $y - x =$

A. $k(t - c)$

B. $k(c - t)$

C. $c(k - t)$

D. $t(k - c)$

E. $k(1 - t)$

•

If k is a positive even integer, which of the following must be an odd integer?

I. $k^2 - 3k + 4$

II. $k^5 + 3$

III. $7k - 7$

A. II only

B. III only

C. I and III only

D. II and III only

E. I, II, and III

Questions 83 to 151 — Difficulty: Medium

83. If $\frac{1}{2}$ the result obtained when 2 is subtracted from $5x$ is equal to the sum of 10 and $3x$, what is the value of x?

A. –22

B. –4

C. 4

D. 18

E. 22

84. If Car A took n hours to travel 2 miles and Car B took m hours to travel 3 miles, which of the following expresses the time it would take Car C, traveling at the average (arithmetic mean) of those rates, to travel 5 miles?

DO NOT COPY filippo.fiz@uptoten.it

Printed by: filippo.fiz@uptoten.it. Printing is for personal, private use only. No part of this book may be reproduced or transmitted without publisher's prior permission. Violators will be prosecuted.

miles?

A. $\frac{10nm}{3n+2m}$

B. $\frac{3n+2m}{10(n+m)}$

C. $\frac{2n+3m}{5nm}$

D. $\frac{10(n+m)}{2n+3m}$

E. $\frac{5(n+m)}{2n+3m}$

85. If x, y, and k are positive and x is less than y, then $\frac{x+k}{y+k}$ is

A. 1

B. greater than $\frac{x}{y}$

C. equal to $\frac{x}{y}$

D. less than $\frac{x}{y}$

E. less than $\frac{x}{y}$ or greater than $\frac{x}{y}$, depending on the value of k

86. Consider the following set of inequalities: $p > q$, $s > r$, $q > t$, $s > p$, and $r > q$. Between which two quantities is no relationship established?

A. p and r

B. s and t

C. s and q

D. p and t

E. r and t

87. Carl averaged $2m$ miles per hour on a trip that took him h hours. If Ruth made the same trip in $\frac{2}{3}h$ hours, what was her average speed in miles per hour?

A. $\frac{1}{3}mh$

B. $\frac{2}{3}mh$

C. m

D. $\frac{3}{2}m$

E. $3m$

88. Of three persons, two take relish, two take pepper, and two take salt. The one who takes no salt takes no pepper, and the one who takes no pepper takes no relish. Which of the following statements must be true?

I. The person who takes no salt also takes no relish.

II. Any of the three persons who takes pepper also takes relish and salt.

DO NOT COPY filippo.fiz@uptoten.it

Printed by: filippo.fiz@uptoten.it. Printing is for personal, private use only. No part of this book may be reproduced or transmitted without publisher's prior permission. Violators will be prosecuted.

II. Any of the three persons who takes pepper also takes relish and salt.

III. The person who takes no relish is not one of those who takes salt.

A. I only

B. II only

C. III only

D. I and II only

E. I, II, and III

89. If the smaller of 2 consecutive odd integers is a multiple of 5, which of the following could NOT be the sum of these 2 integers?

A. −8

B. 12

C. 22

D. 52

E. 252

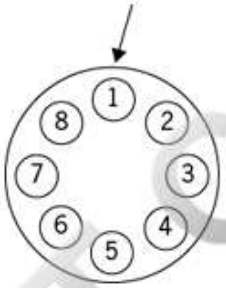

90. Eight light bulbs numbered 1 through 8 are arranged in a circle as shown above. The bulbs are wired so that every third bulb, counting in a clockwise direction, flashes until all bulbs have flashed once. If the bulb numbered 1 flashes first, which numbered bulb will flash last?

A. 2

B. 3

C. 4

D. 6

E. 7

Closing Prices of Stock X
During a Certain Week
(in dollars)

Monday	Tuesday	Wednesday	Thursday	Friday
21	19	22	$24\frac{1}{2}$	23

91. A certain financial analyst defines the "volatility" of a stock during a given week to be the result of the following procedure: find the absolute value of the difference in the stock's closing price for each pair of consecutive days in the week and then find the average (arithmetic mean) of these 4 values. What is the volatility of Stock X during the week shown in the table?

A. 0.50

B. 1.80

C. 2.00

DO NOT COPY
filippo.fiz@uptoten.it

Printed by: filippo.fiz@uptoten.it. Printing is for personal, private use only. No part of this book may be reproduced or transmitted without publisher's prior permission. Violators will be prosecuted.

D. 2.25

E. 2.50

92. If $y = \frac{|3x-5|}{-x^2-3}$, for what value of x will the value of y be greatest?

A. -5

B. $-\frac{3}{5}$

C. 0

D. $\frac{3}{5}$

E. $\frac{5}{3}$

93. What values of x have a corresponding value of y that satisfies both $xy > 0$ and $xy = x + y$?

A. $x \leq -1$

B. $-1 < x \leq 0$

C. $0 < x \leq 1$

D. $x > 1$

E. All real numbers

94. Employee X's annual salary is $12,000 more than half of Employee Y's annual salary. Employee Z's annual salary is $15,000 more than half of Employee X's annual salary. If Employee X's annual salary is $27,500, which of the following lists these three people in order of increasing annual salary?

A. Y, Z, X

B. Y, X, Z

C. Z, X, Y

D. X, Y, Z

E. X, Z, Y

$$C = \begin{cases} 0.10s, \text{ if } s \leq 60{,}000 \\ 0.10s + 0.04(s - 60{,}000), \text{ if } s > 60{,}000 \end{cases}$$

95. The formula above gives the contribution C, in dollars, to a certain profit-sharing plan for a participant with a salary of s dollars. How many more dollars is the contribution for a participant with a salary of $70,000 than for a participant with a salary of $50,000?

A. $800

B. $1,400

C. $2,000

D. $2,400

E. $2,800

96. Next month, Ron and Cathy will each begin working part-time at $\frac{3}{5}$ of their respective current salaries. If the sum of their reduced salaries will be equal to Cathy's current salary, then Ron's current salary is what fraction of Cathy's current salary?

A. $\frac{1}{3}$

B. $\frac{2}{}$

DO NOT COPY filippo.fiz@uptoten.it

Printed by: filippo.fiz@uptoten.it. Printing is for personal, private use only. No part of this book may be reproduced or transmitted without publisher's prior permission. Violators will be prosecuted.

B. $\frac{2}{5}$

C. $\frac{1}{2}$

D. $\frac{3}{5}$

E. $\frac{2}{3}$

97. David and Ron are ordering food for a business lunch. David thinks that there should be twice as many sandwiches as there are pastries, but Ron thinks the number of pastries should be 12 more than one-fourth of the number of sandwiches. How many sandwiches should be ordered so that David and Ron can agree on the number of pastries to order?

A. 12

B. 16

C. 20

D. 24

E. 48

98. The cost of purchasing each box of candy from a certain mail order catalog is v dollars per pound of candy, plus a shipping charge of h dollars. How many dollars does it cost to purchase 2 boxes of candy, one containing s pounds of candy and the other containing t pounds of candy, from this catalog?

A. $h + stv$

B. $2h + stv$

C. $2hstv$

D. $2h + s + t + v$

E. $2h + v(s + t)$

99. If $x \neq -\frac{1}{2}$, then $\frac{6x^3 + 3x^2 - 8x - 4}{2x + 1} =$

A. $3x^2 + \frac{3}{2}x - 8$

B. $3x^2 + \frac{3}{2}x - 4$

C. $3x^2 - 4$

D. $3x - 4$

E. $3x + 4$

100. If $x^2 + bx + 5 = (x + c)^2$ for all numbers x, where b and c are positive constants, what is the value of b?

A. $\sqrt{5}$

B. $\sqrt{10}$

C. $2\sqrt{5}$

D. $2\sqrt{10}$

E. 10

101. Last year Shannon listened to a certain public radio station 10 hours per week and contributed \$35 to the station. Of the following, which is closest to Shannon's contribution per minute of listening time last year?

A. \$0.001

DO NOT COPY
filippo.fiz@uptoten.it

Printed by: filippo.fiz@uptoten.it. Printing is for personal, private use only. No part of this book may be reproduced or transmitted without publisher's prior permission. Violators will be prosecuted.

A. \$0.001

B. \$0.010

C. \$0.025

D. \$0.058

E. \$0.067

102. Each of the 20 employees at Company J is to receive an end-of-year bonus this year. Agnes will receive a larger bonus than any other employee, but only \$500 more than Cheryl will receive. None of the employees will receive a smaller bonus than Cheryl. If the amount of money to be distributed in bonuses at Company J this year totals \$60,000, what is the largest bonus Agnes can receive?

A. \$3,250

B. \$3,325

C. \$3,400

D. \$3,475

E. \$3,500

103. Beth, Naomi, and Juan raised a total of \$55 for charity. Naomi raised \$5 less than Juan, and Juan raised twice as much as Beth. How much did Beth raise?

A. \$9

B. \$10

C. \$12

D. \$13

E. \$15

104. The set of solutions for the equation $(x^2 - 25)^2 = x^2 - 10x + 25$ contains how many real numbers?

A. 0

B. 1

C. 2

D. 3

E. 4

105. An aerosol can is designed so that its bursting pressure, B, in pounds per square inch, is 120% of the pressure, F, in pounds per square inch, to which it is initially filled. Which of the following formulas expresses the relationship between B and F?

A. $B = 1.2F$

B. $B = 120F$

C. $B = 1 + 0.2F$

D. $B = \frac{F}{1.2}$

E. $B = \frac{1.2}{F}$

106. The average (arithmetic mean) of the positive integers x, y, and z is 3. If $x < y < z$, what is the greatest possible value of z?

A. 5

B. 6

C. 7

D. 8

DO NOT COPY filippo.fiz@uptoten.it

Printed by: filippo.fiz@uptoten.it. Printing is for personal, private use only. No part of this book may be reproduced or transmitted without publisher's prior permission. Violators will be prosecuted.

E. 9

107. The product of 3,305 and the 1-digit integer x is a 5-digit integer. The units (ones) digit of the product is 5 and the hundreds digit is y. If A is the set of all possible values of x and B is the set of all possible values of y, then which of the following gives the members of A and B?

	A	B
(A)	{1, 3, 5, 7, 9}	{0, 1, 2, 3, 4, 5, 6, 7, 8, 9}
(B)	{1, 3, 5, 7, 9}	{1, 3, 5, 7, 9}
(C)	{3, 5, 7, 9}	{1, 5, 7, 9}
(D)	{5, 7, 9}	{1, 5, 7}
(E)	{5, 7, 9}	{1, 5, 9}

108. If x and y are integers such that $2 < x \leq 8$ and $2 < y \leq 9$, what is the maximum value of $\frac{1}{x} - \frac{x}{y}$?

A. $-3\frac{1}{8}$

B. 0

C. $\frac{1}{4}$

D. $\frac{5}{18}$

E. 2

109. Items that are purchased together at a certain discount store are priced at \$3 for the first item purchased and \$1 for each additional item purchased. What is the maximum number of items that could be purchased together for a total price that is less than \$30?

A. 25

B. 26

C. 27

D. 28

E. 29

110. What is the least integer z for which $(0.000125)(0.0025)(0.00000125) \times 10^z$ is an integer?

A. 18

B. 10

C. 0

D. −10

E. −18

111. The average (arithmetic mean) length per film for a group of 21 films is t minutes. If a film that runs for 66 minutes is removed from the group and replaced by one that runs for 52 minutes, what is the average length per film, in minutes, for the new group of films, in terms of t?

A. $t + \frac{2}{3}$

DO NOT COPY filippo.fiz@uptoten.it

Printed by: filippo.fiz@uptoten.it. Printing is for personal, private use only. No part of this book may be reproduced or transmitted without publisher's prior permission. Violators will be prosecuted.

B. $t - \frac{2}{3}$

C. $21t + 14$

D. $t + \frac{3}{2}$

E. $t - \frac{3}{2}$

112. A garden center sells a certain grass seed in 5-pound bags at \$13.85 per bag, 10-pound bags at \$20.43 per bag, and 25-pound bags at \$32.25 per bag. If a customer is to buy at least 65 pounds of the grass seed, but no more than 80 pounds, what is the least possible cost of the grass seed that the customer will buy?

A. \$94.03

B. \$96.75

C. \$98.78

D. \$102.07

E. \$105.36

113. If $x = -|w|$, which of the following must be true?

A. $x = -w$

B. $x = w$

C. $x^2 = w$

D. $x^2 = w^2$

E. $x^3 = w^3$

114. A certain financial institution reported that its assets totaled \$2,377,366.30 on a certain day. Of this amount, \$31,724.54 was held in cash. Approximately what percent of the reported assets was held in cash on that day?

A. 0.00013%

B. 0.0013%

C. 0.013%

D. 0.13%

E. 1.3%

DO NOT COPY
filippo.fiz@uptoten.it

$$\begin{array}{r} AB \\ +\,BA \\ \hline AAC \end{array}$$

115. In the correctly worked addition problem shown, where the sum of the two-digit positive integers AB and BA is the three-digit integer AAC, and A, B, and C are different digits, what is the units digit of the integer AAC?

A. 9

B. 6

C. 3

D. 2

E. 0

116. The hard drive, monitor, and printer for a certain desktop computer system cost a total of \$2,500. The cost of the printer and monitor together is equal to $\frac{2}{3}$ of the cost of the hard drive. If the cost of the printer is \$100 more than the cost of the monitor, what is the cost of the printer?

Printed by: filippo.fiz@uptoten.it. Printing is for personal, private use only. No part of this book may be reproduced or transmitted without publisher's prior permission. Violators will be prosecuted.

A. \$800

B. \$600

C. \$550

D. \$500

E. \$350

$$3r \leq 4s + 5$$
$$|s| \leq 5$$

117. Given the inequalities above, which of the following CANNOT be the value of r?

A. −20

B. −5

C. 0

D. 5

E. 20

118. If m is an even integer, v is an odd integer, and $m > v > 0$, which of the following represents the number of even integers less than m and greater than v?

A. $\frac{m-v}{2} - 1$

B. $\frac{m-v-1}{2}$

C. $\frac{m-v}{2}$

D. $m - v - 1$

E. $m - v$

119. A positive integer is divisible by 9 if and only if the sum of its digits is divisible by 9. If n is a positive integer, for which of the following values of k is $25 \times 10^n + k \times 10^{2n}$ divisible by 9?

A. 9

B. 16

C. 23

D. 35

E. 47

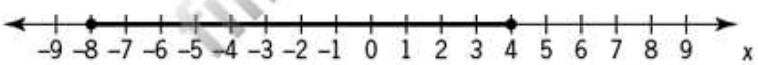

120. On the number line, the shaded interval is the graph of which of the following inequalities?

A. $|x| \leq 4$

B. $|x| \leq 8$

C. $|x - 2| \leq 4$

D. $|x - 2| \leq 6$

E. $|x + 2| \leq 6$

121. Last year members of a certain professional organization for teachers consisted of teachers from 49 different school districts, with an average (arithmetic mean) of 9.8 schools per district. Last year the average number of teachers at these schools who were members of the organization was 22. Which of the following is closest to the total number of members of the organization last year?

DO NOT COPY
filippo.fiz@uptoten.it

Printed by: filippo.fiz@uptoten.it. Printing is for personal, private use only. No part of this book may be reproduced or transmitted without publisher's prior permission. Violators will be prosecuted.

total number of members of the organization last year?

A. 10^7

B. 10^6

C. 10^5

D. 10^4

E. 10^3

122. Of all the students in a certain dormitory, $\frac{1}{2}$ are first-year students and the rest are second-year students. If $\frac{4}{5}$ of the first-year students have not declared a major and if the fraction of second-year students who have declared a major is 3 times the fraction of first-year students who have declared a major, what fraction of all the students in the dormitory are second-year students who have not declared a major?

A. $\frac{1}{15}$

B. $\frac{1}{5}$

C. $\frac{4}{15}$

D. $\frac{1}{3}$

E. $\frac{2}{5}$

123. If the average (arithmetic mean) of x, y, and z is $7x$ and $x \neq 0$, what is the ratio of x to the sum of y and z?

A. 1:21

B. 1:20

C. 1:6

D. 6:1

E. 20:1

124. Jonah drove the first half of a 100-mile trip in x hours and the second half in y hours. Which of the following is equal to Jonah's average speed, in miles per hour, for the entire trip?

A. $\frac{50}{x+y}$

B. $\frac{100}{x+y}$

C. $\frac{25}{x}+\frac{25}{y}$

D. $\frac{50}{x}+\frac{50}{y}$

E. $\frac{100}{x}+\frac{100}{y}$

125. If the amount of federal estate tax due on an estate valued at \$1.35 million is \$437,000 plus 43 percent of the value of the estate in excess of \$1.25 million, then the federal tax due is approximately what percent of the value of the estate?

A. 30%

DO NOT COPY filippo.fiz@uptoten.it

Printed by: filippo.fiz@uptoten.it. Printing is for personal, private use only. No part of this book may be reproduced or transmitted without publisher's prior permission. Violators will be prosecuted.

B. 35%

C. 40%

D. 45%

E. 50%

$$7x + 6y \leq 38{,}000$$
$$4x + 5y \leq 28{,}000$$

126. A manufacturer wants to produce x balls and y boxes. Resource constraints require that x and y satisfy the inequalities shown. What is the maximum number of balls and boxes combined that can be produced given the resource constraints?

A. 5,000

B. 6,000

C. 7,000

D. 8,000

E. 10,000

127. If $\frac{3}{10^4} = x\%$, then $x =$

A. 0.3

B. 0.03

C. 0.003

D. 0.0003

E. 0.00003

128. What is the remainder when 3^{24} is divided by 5?

A. 0

B. 1

C. 2

D. 3

E. 4

129. José has a collection of 100 coins, consisting of nickels, dimes, quarters, and half-dollars. If he has a total of 35 nickels and dimes, a total of 45 dimes and quarters, and a total of 50 nickels and quarters, how many half-dollars does he have?

A. 15

B. 20

C. 25

D. 30

E. 35

130. David used part of \$100,000 to purchase a house. Of the remaining portion, he invested $\frac{1}{3}$ of it at 4 percent simple annual interest and $\frac{2}{3}$ of it at 6 percent simple annual interest. If after a year the income from the two investments totaled \$320, what was the purchase price of the house?

A. \$96,000

B. \$94,000

C. \$92,000

DO NOT COPY
filippo.fiz@uptoten.it

Printed by: filippo.fiz@uptoten.it. Printing is for personal, private use only. No part of this book may be reproduced or transmitted without publisher's prior permission. Violators will be prosecuted.

C. $88,000

D. $75,000

E. $40,000

131. A certain manufacturer sells its product to stores in 113 different regions worldwide, with an average (arithmetic mean) of 181 stores per region. If last year these stores sold an average of 51,752 units of the manufacturer's product per store, which of the following is closest to the total number of units of the manufacturer's product sold worldwide last year?

A. 10^6

B. 10^7

C. 10^8

D. 10^9

E. 10^{10}

132.

DO NOT COPY
filippo.fiz@uptoten.it